

Chapter 1
Continous & discrete time signals


~~Analog~~ Analog (continous Amplitude)




Digital (discrete values) — amplitude




Continued Time

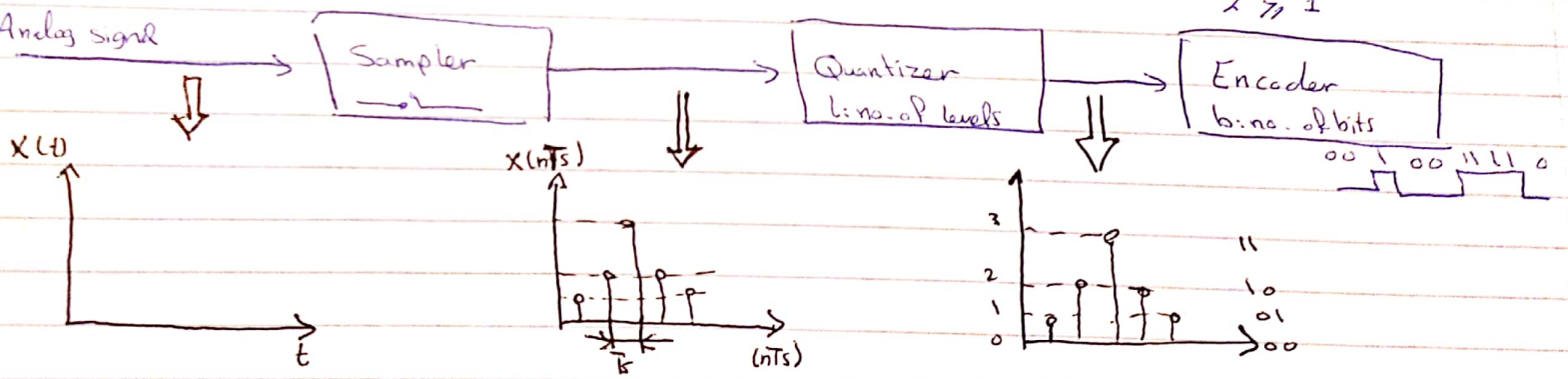


Discrete Time Signal





bec. we can't specify Value



Continued time & continued amplitude

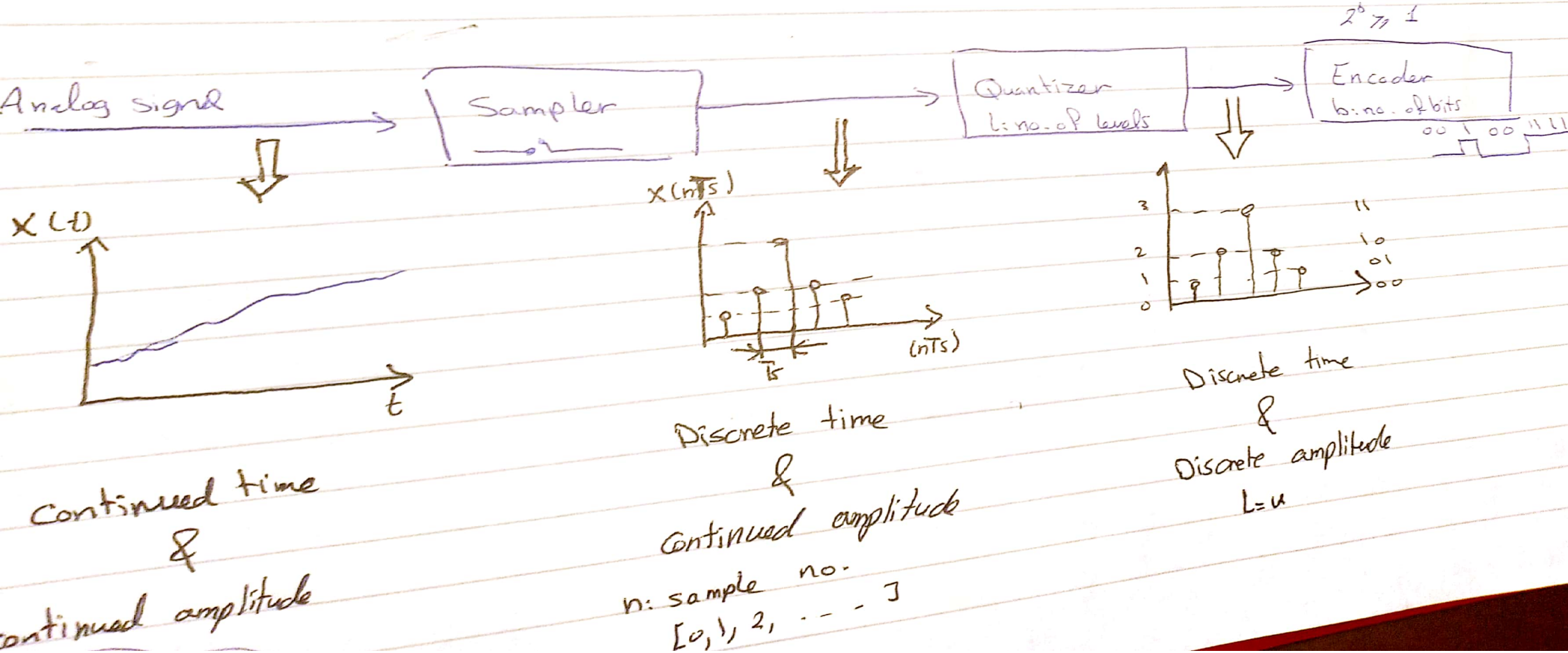
Discrete time & Continued amplitude

n: sample no.
[0, 1, 2, . . .]

Discrete time & Discrete amplitude


L = u

Scanned with CamScanner



Scanned with CamScanner

* continous time sinosoidal signal (proof relation between F, f & f_s)



$N_p = 8$ samples

↓ Fundamental period

* $x(t) = A \sin(2\pi f t + \theta)$

A ..... amplitude

θ ..... phase shift [°]

f ..... frequency $= \frac{1}{T_p}$ [Hz, $\frac{cycle}{sec}$]

T_p ..... fundamental period [sec.]

* x(t) is periodic every $T_p \rightarrow x(t) = x(t \pm T_p)$

$x(nTs) = A \sin(2\pi f nTs + \theta)$

(or)

$= A \sin(2\pi \frac{f}{f_s} n + \theta)$

$= A \sin(2\pi F n + \theta)$

$F = \frac{f}{f_s}$ [cycle / sample]

- relative frequency
- Digital frequency
- frequency of discrete time signals

$f_s = \frac{1}{T_s}$ → sampling time

Sampling frequency [Hz, $\frac{sample}{sec}$]

$$F_s \geq 2 f_{max}$$

Nyquist condition

* for the signal x(n) to be periodic → F must be rational = $\frac{integer}{integer} = \frac{k}{N_p}$ → integer 1,2,3,4...

* continous signal are periodic bs el ba2i lazem ashof F

Scanned with CamScanner

Proof

Find the periodicity condition of $x(n)$

$$x(n) \equiv x(nT_s) = A \sin(2\pi F n + \theta)$$

For $x(n)$ to be periodic

$$x(n) = x(n + N_p)$$

yani bu eşitlik sana el point n ve sonraki N_p kadar point sonra amplitude'u el

$$x(n+N_p) = A \sin(2\pi F (n + N_p) + \theta)$$

$$x(n+N_p) = A \sin(2\pi F n + 2\pi F N_p + \theta)$$

if $FN_p = k$ [integer number]

$$x(n+N_p) = A \sin(2\pi F n + \theta)$$

$$\sin(\theta + k2\pi) = \sin\theta \qquad k = 0, 1, 2, \dots$$

and $x(n)$ will be periodic every N_p

$$F = \frac{k}{N_p} = \frac{\text{integer}}{\text{integer}}$$

N_p is fundamental period at discrete time sinusoidal signal

T_p is fundamental period at continuous time sinusoidal signal

Scanned with CamScanner

* check the periodicity of the following signals:

① $x(n) = 5\cos\left(\frac{15\pi n}{75}\right)$ → Discrete

$= A\cos(2\pi F n + \theta)$

ay signal feha t tb2a continous lakn el feha n tb2a discrete

$A = 5$, $\theta = 0$

$2\pi F_y = \frac{15\pi_x}{75}$

$F = \frac{15}{150}$ → rational $\frac{\text{cycle}}{\text{sample}}$

$F = \frac{15}{150} = \frac{1}{10} = \frac{k}{N_p}$ ← Fundamental period

$x(N+N_p) = 5\cos\left(\frac{15\pi}{75}(n+10)\right) = 5\cos\left(\frac{15\pi n}{75} + 2\pi\right) = 5\cos\left(\frac{15\pi n}{75}\right)$

$\because x(n) = x(N+N_p)$

$\therefore$ periodic

cos m3 ay rakam elien mdrb fel π tb2a kolaha cos

$\because x(n) = x(N+N_p)$ → the signal is periodic every 10 samples

Scanned with CamScanner

(2) $x(t) = 3 \sin(100t + 60°)$ → continous

(lazem attached bya cont. wla discrete)

$= A \sin(2\pi f t + \theta)$

$A = 3$, $\theta = 60°$, $f = \frac{50}{\pi}$ Hz

$T_p = \frac{1}{f} = \frac{\pi}{50}$ (sec.) ← fundamental period

$x(t + t_p) = 3 \sin(100(t + T_p) + 60°)$

(el cos bytfuk msh bytwa3)

$= 3 \sin(100t + 2\pi + 60°)$

(ay angle mgmo3 3leha 2π akeneha mgmo3 3leha zero)

$= 3 \sin(100t + 60°)$

$\because x(t) = x(t + T_p)$

$\therefore$ the signal is periodic every $\frac{\pi}{50}$ sec.

(3) $x(n) = 3 \sin(100n + 60°)$ → Discrete

$= A \sin(2\pi f n + \theta)$

$A = 3$, $\theta = 60°$, $f = \frac{50}{\pi}$ (irrational)

$\therefore$ the signal is aperiodic

Scanned with CamScanner

sheet 1
1.7

Ex: $x(t) = 3\sin(100\pi t)$

① plot the signal at $t = [0, 30]$ msec.

② check the periodicity.

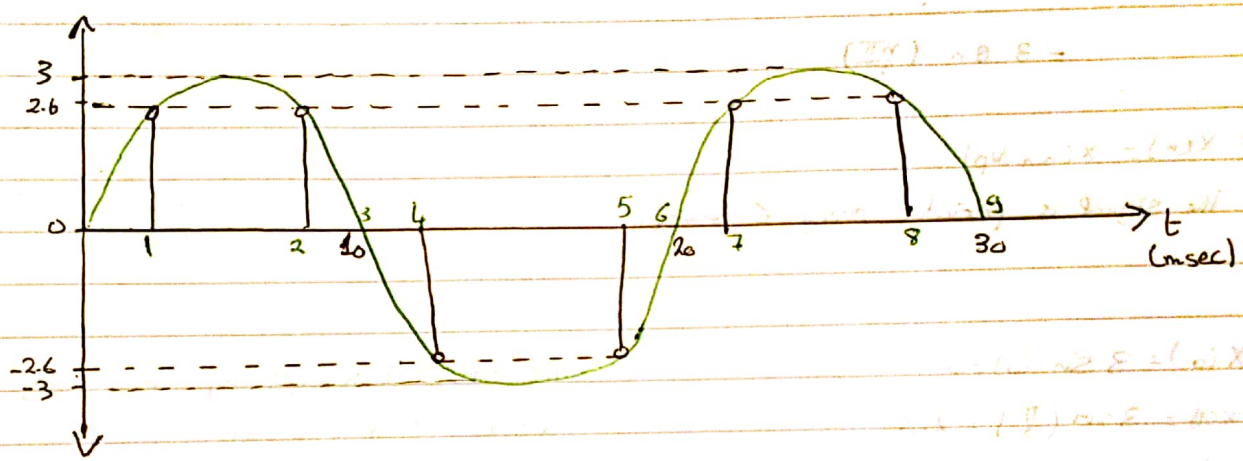
③ if the signal is sampled using $F_s = 300$ $\frac{\text{samples}}{\text{sec.}}$, find the value of the digital frequency & check the signal periodicity.

④ Compute the sample values during one cycle of $x(n)$ & plot them with the same figure of $x(t)$

⑤ Can you find a sampling rate (F_s) such that the signal reaches it's peak value?

* sol. *

①



$x(t) = 3\sin(100\pi t)$

$= A\sin(2\pi f t + \theta)$

$A = 3$, $\theta = 0$, $f = 50$ Hz, $T_p = \frac{1}{f} = 20$ msec.

② $x(t + T_p) = 3\sin(100\pi(t + 2 * 10^{-3}))$

$= 3\sin(100\pi t + 2\pi)$

$= 3\sin(100\pi t)$

sin is always periodic

$\because x(t) = x(t + T_p)$

$\therefore$ the signal is periodic every 20 msec.

Scanned with CamScanner

(3)

$F = \frac{f}{f_s} = \frac{50}{300} = \frac{1}{6} \frac{\text{cycle}}{\text{sample}} = \frac{N}{N_p}$ → khlal abosat el eqn 17d ma ansal 3l simplest form

$x(n) = 3 \sin\left(\frac{100\pi n}{300}\right) = 3 \sin\left(\frac{n\pi}{3}\right)$

$x(n+N_p) = 3 \sin\left(\frac{\pi}{3}(n+6)\right)$

$= 3 \sin\left(\frac{n\pi}{3} + 2\pi\right)$

$= 3 \sin\left(\frac{n\pi}{3}\right)$

$\pi = 180$
& calculator on degree

ktalama 3mlt sampling ybda 3anzan N_p

$\therefore x(n) = x(n+N_p)$

$\therefore$ the signal is periodic every 6 samples

(4)
↓
bnzeb 6 samples bs

$x(0) = 3 \sin(0) = 0$

$x(1) = 3 \sin\left(\frac{\pi}{3}\right) = 2.6$

~~x(2)~~

$x(2) = 3 \sin\left(\frac{2\pi}{3}\right) = 2.6$

$x(3) = 3 \sin(\pi) = 0$

$x(4) = 3 \sin\left(\frac{4\pi}{3}\right) = -2.6$

$x(5) = 3 \sin\left(\frac{5\pi}{3}\right) = -2.6$

we get x(n) by replacing each t by nts

$x(t) = 3 \sin(100\pi t)$

$x(n) = 3 \sin(100\pi n T_s)$, F_s

$x(n) = 3 \sin\left(\frac{100}{3\cancel{00}}\pi n\right)$

$x(n) = 3 \sin\left(\frac{\pi n}{3}\right)$

cos →

Scanned with CamScanner

(5)

peak value = 3

$x(n) = 3 \rightarrow 3 \sin\left(\frac{100\pi n}{Fs}\right) = 3$ (sin⁻¹ for both)

$\frac{100\pi n}{Fs} = \frac{\pi}{2}$

$Fs = 200\,n \quad \frac{\text{Sample}}{\text{sec.}}$

n: integer no. 1, 2, 3, ----

Extra

$3\sin\left(\frac{n\pi}{2}\right)$

$n=0 \rightarrow x(0) = 0$

$n=1 \rightarrow 3\sin\left(\frac{\pi}{2}\right) = 3$

$3\sin\left(\frac{n\pi}{8}\right) =$

$n=1 \rightarrow 3$

$n=2 \rightarrow$ ✓

$n=4 \rightarrow 3\sin\left(\frac{\pi}{2}\right) = 3$

Scanned with CamScanner

Check the periodicity of the following signal:

① $x(n) = 3 \sin\left(\frac{30}{105}\pi n + 30^\circ\right)$

$= A \sin(2\pi F n + \theta)$

$F = \frac{30}{210}$ cycle / sample, $F = \frac{1}{7} = \frac{k}{N_p}$

$k = 1$, $N_p = 7$ samples

$x(N+N_p) = 3 \sin\left(\frac{30}{105}\pi(n+N_p) + 30^\circ\right)$

$= 3 \sin\left(\frac{30}{105}\pi(n+7) + 30^\circ\right)$

$= 3 \sin\left(\frac{30}{105}\pi n + 2\pi + 30^\circ\right)$

$= 3 \sin\left(\frac{30}{105}\pi n + 30^\circ\right)$

$\because x(n) = x(n+N_p)$

$\therefore$ the signal is periodic every 7 samples

② $x(t) = 3 \sin(300t + 30^\circ)$

$= A \sin(2\pi f t + \theta)$

$f = \frac{150}{\pi}$ Hz, $T_p = \frac{\pi}{150}$ sec.

$x(t+T_p) = 3 \sin(300(t+T_p) + 30^\circ) = 3 \sin\left(300\left(t + \frac{\pi}{150}\right) + 30^\circ\right)$

$x(t+T_p) = 3 \sin(300t + 2\pi + 30^\circ) = 3 \sin(300t + 30^\circ)$

$\because x(t) = x(t+T_p)$

$\therefore$ the signal is periodic every $\frac{\pi}{150}$ sec.

Scanned with CamScanner

③ $x(n) = 3 \sin\left(\frac{30}{105} n + 30°\right)$

$= A \sin(2\pi F n + \theta)$

$F = \frac{30}{210\pi}$ cycle/sample (irrational)

∴ the signal is aperiodic (non-periodic) signal

Example:

for the following signal $x(t) = 3\cos(100\pi t)$

ⓐ using twice the minimum sampling frequency, obtain the sample values during 1 cycle of $x(n)$

$x(t) = 3\cos(100\pi t)$

$x(t) = A\cos(2\pi f t + \theta)$

$f = 50$ Hz, $T_p = 20$ msec.

From Nyquist $f_s \geq 2 f_m \rightsquigarrow f_s \geq 100$ Hz

$f_s|_{min} = 100$ Hz $= F_{Nyquist}$

→ using twice the minimum sampling frequency ($f_s = 200$ Hz)

$x(n) = 3\cos(100\pi n T_s)$

$x(n) = 3\cos\left(\frac{100}{200}\pi n\right)$

bageb Np 3lshan a3rf no. of samples

$x(n) = 3\cos\left(\frac{\pi n}{2}\right)$

$F = \frac{f}{f_s} = \frac{k}{N_p} = \frac{1}{4} \longrightarrow N_p = 4$ samples

$x(0) = 3\cos(0) = 3$

$x(1) = 3\cos\left(\frac{\pi}{2}\right) = 0$

$x(2) = 3\cos(\pi) = -3$

$x(3) = 3\cos\left(\frac{3\pi}{2}\right) = 0$

Scanned with CamScanner

SHEET # 1

1.1 Define the following items: Signal, system, signal processing. (State one example for each)

1.2 Classify the different types of signal processing.

1.3 Classify the different signal types.

1.4 Explain the basic three operations performed in A/D converters.

1.5 State and explain the sampling theorem.

1.6 Determine which of the following sinusoid signals are periodic, and then compute their fundamental period.

(a) $x_{a(t)} = 3\cos(5t+\pi/6)$ (b) $x_{a(t)} = 3\cos(100\pi t)$

(c) $x(n) = \cos[\pi(30n/105)]$ (d) $x(n) = 2\exp.[j(n/6-\pi)]$

1.7 Consider the following analog sinusoid signal: $x_{a(t)} = 3\sin(100\pi t)$

(a) Sketch the signal for [0, 30] ms.

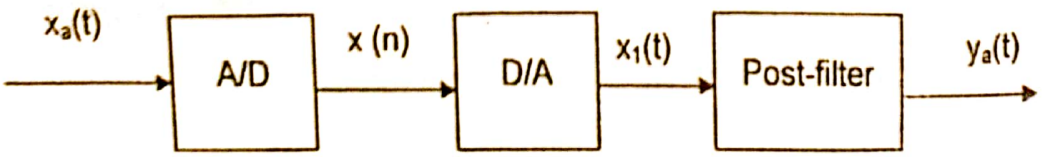
(b) The signal $x_{a(t)}$ is sampled with sampling rate F_S=300 samples per second. Determine the frequency of the discrete-time signal and show that it is periodic.

(c) Compute the sample values in one period of x (n). Sketch x (n) on the same diagram with $x_{a(t)}$. What is the period of this discrete-time signal, x (n).?

(d) Can you find a sampling rate F_S such that the signal X(n) reaches its peak value 3? What is the minimum F_S suitable for this task?

1.8 Consider a simple signal processing system as shown in the following figure. The sampling periods of the A/D and D/A converters are T_1=5 ms and T_2=1 ms respectively. Determine the output y_a (t) if the input is given by:

$x_{a(t)} = 3\cos(100\pi t) + 2\sin(250\pi t)$ (t in second)





Scanned with CamScanner

Chapter 2

Discrete Fourier transform (DFT)

bn3mlo 3la signal discrete in time

	Continous time	Discrete time
periodic	Fourier series 	Discrete Fourier series (DFS)
Aperiodic	Fourier transform 	Discrete Fourier transform (DFT)

$$X(k) = \sum_{n=0}^{N-1} x(n)\, e^{-j\frac{2\pi}{N}nk}$$

- $X(k)$: spectrum
- n: sample no. ($n = 0, 1, 2, 3$)
- $x(n)$: signal in time domain
- N: No. of samples ($N = 4$)
- k: harmonic no.

Scanned with CamScanner

* Example:

$x(n) = \{2, -1, 0.5, 3\}$ then ① Find $X(k)$

② plot the magnitude & phase spectrum

③ check parseval's theory

④ check your result by calculating the IDFT.

sol.

$e^{\pm j\theta} = \cos\theta \pm j\sin\theta$

① $N=4$, $x(n) = \{\underset{x(0)}{2}, \underset{x(1)}{-1}, \underset{x(2)}{0.5}, \underset{x(3)}{3}\}$

$$X(k) = \sum_{n=0}^{3} x(n)\, e^{-j\frac{\pi}{2}nk}$$ ← b3awad b kol rakam

kol mara 4 samples bs bstkef el arkam

$$X(k) = x(0) + x(1)\, e^{-j\frac{\pi}{2}k} + x(2)\, e^{-j\pi k} + x(3)\, e^{-j\frac{3\pi}{2}k}$$

$$\boxed{X(k) = 2 - e^{-j\frac{\pi}{2}k} + 0.5e^{-j\pi k} + 3e^{-j\frac{3\pi}{2}k}}$$

$\pi = 180°$

b3ml l2ol k=3 bec. (4 samples) ↳

Values el mszla sabta msh bt+3'ayar

at $k=0$: $X(0) = 2 - 1 + 0.5 + 3 = \boxed{4.5}$

at $k=1$: $X(1) = 2 - e^{-j\frac{\pi}{2}}{}_{(-j)} + 0.5e^{-j\pi}{}_{(-1)} + 3e^{-j\frac{3\pi}{2}}{}_{(j)} = 2 + j - 0.5 + 3j = \boxed{1.5 + 4j}$

at $k=2$: $X(2) = 2 - e^{-j\pi}{}_{(-1)} + 0.5e^{-j2\pi}{}_{(1)} + 3e^{-j3\pi}{}_{(-1)} = 2 + 1 + 0.5 - 3 = \boxed{0.5}$

at $k=3$: $X(3) = 2 - e^{-j\frac{3\pi}{2}}{}_{(j)} + 0.5e^{-j3\pi}{}_{(-1)} + 3e^{-j\frac{9\pi}{2}}{}_{(-j)} = 2 - j - 0.5 - 3j = \boxed{1.5 - 4j}$

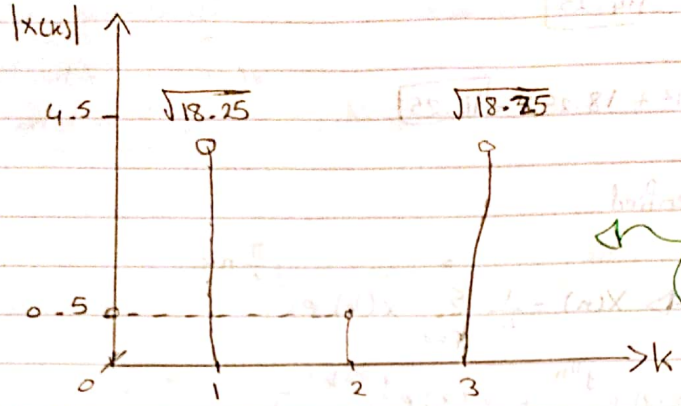
$X(k) = \{4.5, 1.5+4j, 0.5, 1.5-4j\}$

Scanned with CamScanner

② $|X(k)| = \sqrt{Re^2(x(k)) + Im^2(x(k))}$

always +ve

msh bn3ml el j^2

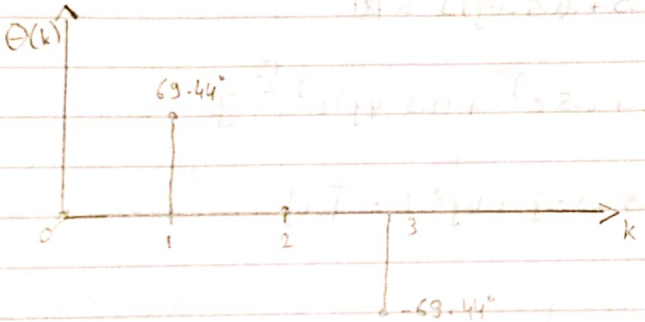


Always Positive

* Fata lw kanet -0.5 Fel eqn ,, a3mlha 0.5 Fel graph

$\theta(k) = \tan^{-1}\left(\frac{Im(x(k))}{Re(x(k))}\right)$

$\theta(k) = \{0, \tan^{-1}(\frac{4}{1.5}), 0, -\tan^{-1}(\frac{4}{1.5})\}$



*at X(k) is real:

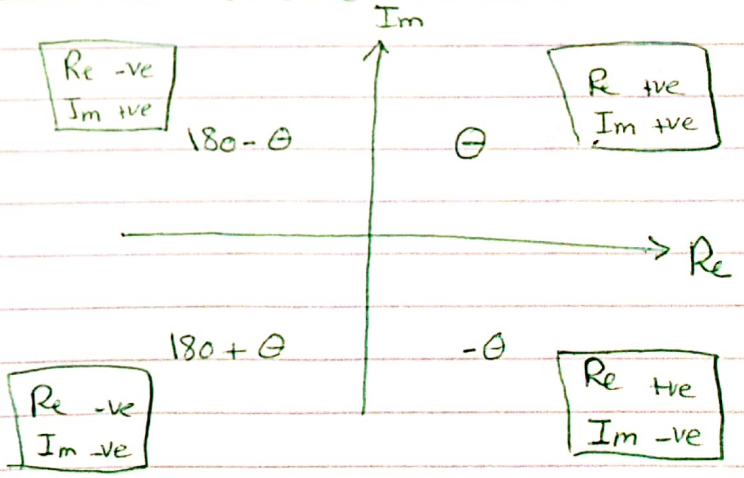
$\theta(k) = \begin{cases} 0 & +ve \\ 180^\circ & -ve \end{cases}$

*at x(k) is imaginary:

$\theta(k) = \begin{cases} 90^\circ & +ve \\ 270^\circ & -ve \end{cases}$

* Fa any point not on axis:

$\theta(k) = \tan^{-1}\left(\frac{Im}{Re}\right)$



Scanned with CamScanner

Proof

Lazem ykono ad b3d n3mlha 7ata lw msh mtloba

③ $\sum_{n=0}^{N-1} x^2(n) = \frac{1}{N} \sum_{k=0}^{N-1} |X(k)|^2$

L.H.S $= 2^2 + (-1)^2 + (0.5)^2 + 3^2 = \boxed{14.25}$

R.H.S $= \frac{1}{4}\left((4.5)^2 + 18.25 + (0.5)^2 + 18.25\right) = \boxed{14.25}$

Then Parseval's theory is verified

④ $x(n) = \frac{1}{N} \sum_{k=0}^{N-1} X(k)\, e^{j\frac{2\pi}{N}nk} \longrightarrow x(n) = \frac{1}{4} \sum_{k=0}^{3} X(k)\, e^{j\frac{\pi}{2}nk}$

$x(n) = \frac{1}{4}\left[X(0) + X(1)\, e^{j\frac{\pi}{2}n} + X(2)\, e^{j\pi n} + X(3)\, e^{j\frac{3\pi}{2}k}\right]$

$x(n) = \frac{1}{4}\left[4.5 + (1.5+4j)\, e^{j\frac{\pi}{2}n} + 0.5\, e^{j\pi n} + (1.5-4j)\, e^{j\frac{3\pi}{2}n}\right]$

$x(0) = \frac{1}{4}\left[4.5 + (1.5+4j) + 0.5 + (1.5-4j)\right] = \boxed{2}$

lazem mykonsh feha imaginary

$x(1) = \frac{1}{4}\left[4.5 + (1.5+4j)\, e^{j\frac{\pi}{2}} + 0.5\, e^{j\pi} + (1.5-4j)\, e^{j\frac{3\pi}{2}}\right]$ ($e^{j\frac{\pi}{2}} = j$, $e^{j\pi} = -1$, $e^{j\frac{3\pi}{2}} = -j$)

$= \frac{1}{4}\left[4.5 + 1.5j + 4j^2 - 0.5 - 1.5j + 4j^2\right] = \boxed{-1}$

Scanned with CamScanner

* Example:

① Find the frequency component ($X(k)$) of the sequence $x(n) = \{-2, 1, 0.5, 3\}$

sol.

$$X(k) = \sum_{n=0}^{N-1} x(n)\, e^{-j\frac{2\pi}{N}nk}, \quad N=4$$

$$X(k) = \sum_{n=0}^{3} x(n)\, e^{-j\frac{\pi}{2}nk}$$

$$X(k) = x(0) + x(1)e^{-j\frac{\pi}{2}k} + x(2)e^{-j\pi k} + x(3)e^{-j\frac{3\pi}{2}k} \qquad \pi = 180^\circ$$

$$X(k) = -2 + e^{-j\frac{\pi}{2}k} + 0.5e^{-j\pi k} + 3e^{-j\frac{3\pi}{2}k}, \quad k = 0, 1, 2, 3$$

at $k=0$: $X(0) = -2 + e^{0} + 0.5e^{0} + 3e^{0} = \boxed{2.5}$

at $k=1$: $X(1) = -2 + e^{-j\frac{\pi}{2}} + 0.5e^{-j\pi} + 3e^{-j\frac{3\pi}{2}} = -2 + (-j) + (-0.5) + (3j) = \boxed{-2.5 + 2j}$

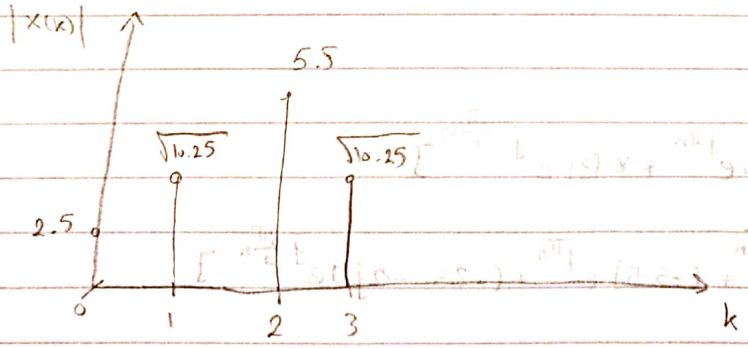
at $k=2$: $X(2) = -2 + e^{-j\pi} + 0.5e^{-j2\pi} + 3e^{-j3\pi} = -2 + (-1) + 0.5 + (-3) = \boxed{-5.5}$

at $k=3$: $X(3) = -2 + e^{-j\frac{3\pi}{2}} + 0.5e^{-j3\pi} + 3e^{-j\frac{9\pi}{2}} = -2 + j + (-0.5) + (-3j) = \boxed{-2.5 - 2j}$

$$X(k) = \{2.5, -2.5+2j, -5.5, -2.5-2j\}$$

② plot amplitude & phase spectrum

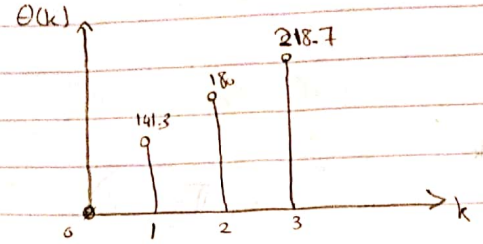
$$|X(k)| = \sqrt{Re^2 + Im^2} = \{2.5, \sqrt{(2.5)^2+2^2}, 5.5, \sqrt{(2.5)^2+2^2}\} = \{2.5, \sqrt{6.25}, 5.5, \sqrt{6.25}\}$$



Scanned with CamScanner

$\theta(k) = \{0, \tan^{-1}\frac{2}{2.5}, 180°, \tan^{-1}\frac{2}{2.5}\}$

$\theta(k) = \{0, 141.3°, 180°, 218.7°\}$



③ check the parseval's theory

$$\sum_{n=0}^{N-1} x^2(n) = \frac{1}{N}\sum_{k=0}^{N-1} |X(k)|^2$$

L.H.S $= 4 + 1 + 0.25 + 9 = 14.25$

R.H.S $= \frac{1}{4}(6.25 + 10.25 + 36.25 + 10.25) = 14.25$

$\therefore$ :: Parseval's theory is verified

④ get IDFT of X(k)

$$x(n) = \frac{1}{N}\sum_{k=0}^{N-1} X(k)\, e^{j\frac{2\pi}{N}nk}, \quad N = 4$$

$X(k) = \{2.5, -2.5+2j, -5.5, -2.5-2j\}$

$$x(n) = \frac{1}{4}\sum_{k=0}^{3} X(n)\, e^{j\frac{\pi}{2}nk}$$

$$x(n) = \frac{1}{4}\left[X(0) + X(1)\, e^{j\frac{\pi}{2}n} + X(2)\, e^{j\pi n} + X(3)\, e^{j\frac{3\pi}{2}n}\right]$$

$$x(n) = \frac{1}{4}\left[2.5 + (-2.5+2j)\, e^{j\frac{\pi}{2}n} + (-5.5)\, e^{j\pi n} + (-2.5-2j)\, e^{j\frac{3\pi}{2}n}\right]$$

$n = 0, 1, 2, 3$

bn7ot kolo +ve fel tan!
w b3d ma ngeb el value bnshof hya fe anhi rebe3 w n7sebha

Scanned with CamScanner

at n=0:

$$X(0) = \frac{1}{4}\left[2.5 + (-2.5+2j)e^{0} + (-5.5)e^{0} + (-2.5-2j)e^{0}\right] = \boxed{-2}$$

$\boxed{j^2 = -1}$

at n=1:

$$X(1) = \frac{1}{4}\left[2.5 + (-2.5+2j)e^{j\frac{\pi}{2}} + (5.5)e^{j\pi} + (-2.5-2j)e^{j\frac{3\pi}{2}}\right] = \boxed{1}$$

($e^{j\frac{\pi}{2}} = j$, $e^{j\pi} = -1$, $e^{j\frac{3\pi}{2}} = -j$)

at n=2:

$$X(2) = \frac{1}{4}\left[2.5 + (-2.5+2j)e^{j\pi} + (-5.5)e^{j2\pi} + (-2.5-2j)e^{j3\pi}\right] = \boxed{0.5}$$

($e^{j\pi} = -1$, $e^{j2\pi} = 1$, $e^{j3\pi} = -1$)

at n=3:

$$X(3) = \frac{1}{4}\left[2.5 + (-2.5+2j)e^{j\frac{3\pi}{2}} + (-5.5)e^{j3\pi} + (-2.5-2j)e^{j\frac{9\pi}{2}}\right] = \boxed{3}$$

($e^{j\frac{3\pi}{2}} = -j$, $e^{j3\pi} = -1$, $e^{j\frac{9\pi}{2}} = j$)

$\therefore X(n) = [-2, 1, 0.5, 3]$

as expected

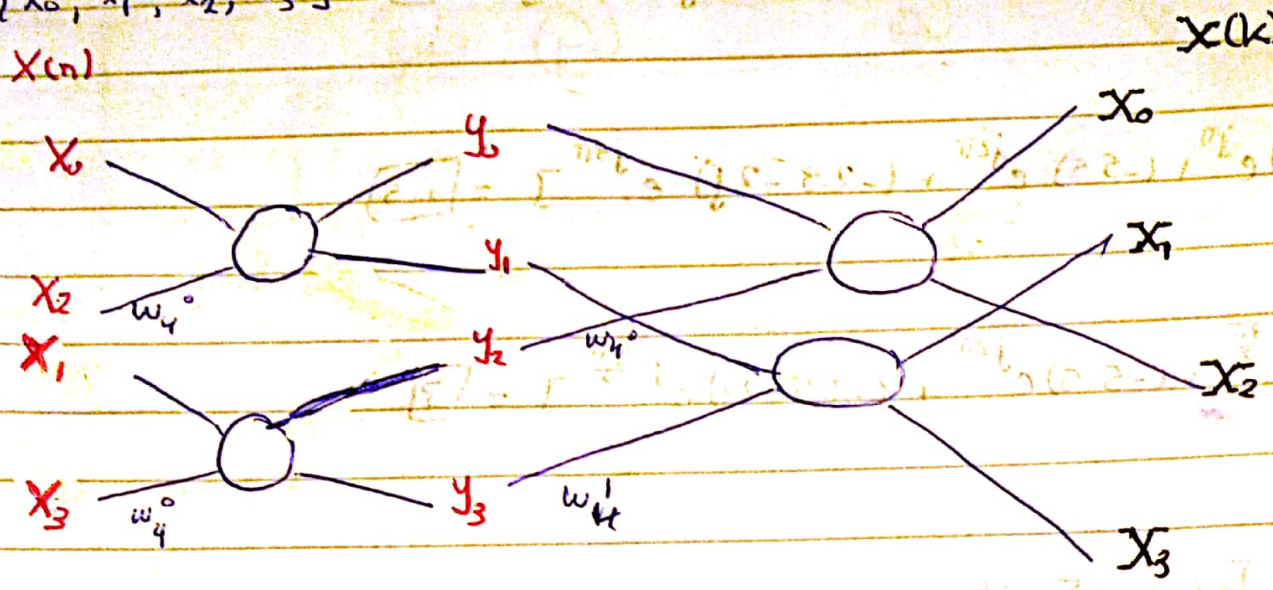
Scanned with CamScanner

Fast Fourier Transform (FFT)

(It's a modified version of DFT)

(Also named Butterfly)

$x(n) = \{x_0, x_1, x_2, x_3\}$



$y_0 = x_0 + x_2$

$y_1 = x_0 - x_2$

$y_2 = x_1 + x_3$

$y_3 = x_1 - x_3$

$x(0) = y_0 + y_2$

$x(1) = y_1 + (-j)\, y_3$

$x(2) = y_0 - y_2$

$x(3) = y_1 - (-j)\, y_3$

$W_4^1 = -j$

3shan kda el y_3 mdroba

fe $(-j)$

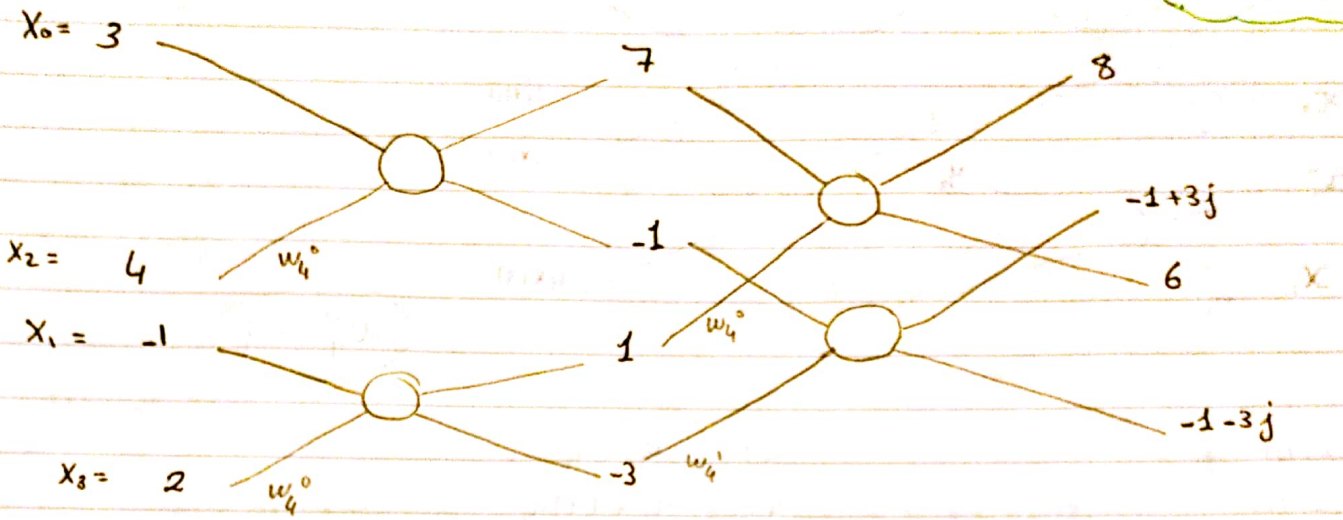
Scanned with CamScanner

* Example:

Find the frequency component $X(k)$ of the following sequence: $x(n) = \{3, -1, 4, 2\}$

sol.

hel emt7an hyt3lb mn3ml DFT aw FFT



$y_0 = x_0 + x_2 = 7$

$y_1 = x_0 - x_2 = -1$

$y_2 = x_1 + x_3 = 1$

$y_3 = x_1 - x_3 = -3$

$X(0) = y_0 + y_2 = 8$

$X(1) = y_1 + (-j)\, y_3 = -1+3j$

$X(2) = y_0 - y_2 = 6$

$X(3) = y_1 - (-j)\, y_3 = -1-3j$

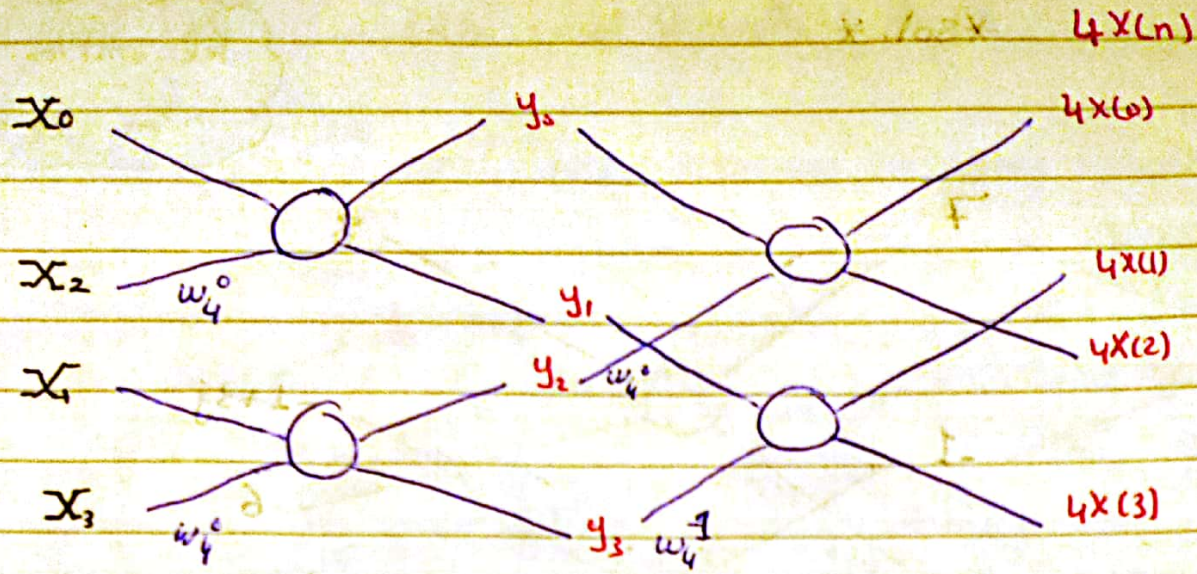
takama tl3 complex ymin lwen ykono conjugate

$X(k) = \{8, -1+3j, 6, -1-3j\}$

Scanned with CamScanner

Inverse Fast Fourier Transform (IFFT)

$X(k)$



$$\omega_4^{-1} = j$$

$y_0 = X(0) + X(2)$

$y_1 = X(0) - X(2)$

$y_2 = X(1) + X(3)$

$y_3 = X(1) - X(3)$

$4X_0 = y_0 + y_2$

$4X_1 = y_1 + (j)\,y_3$

$4X_2 = y_0 - y_2$

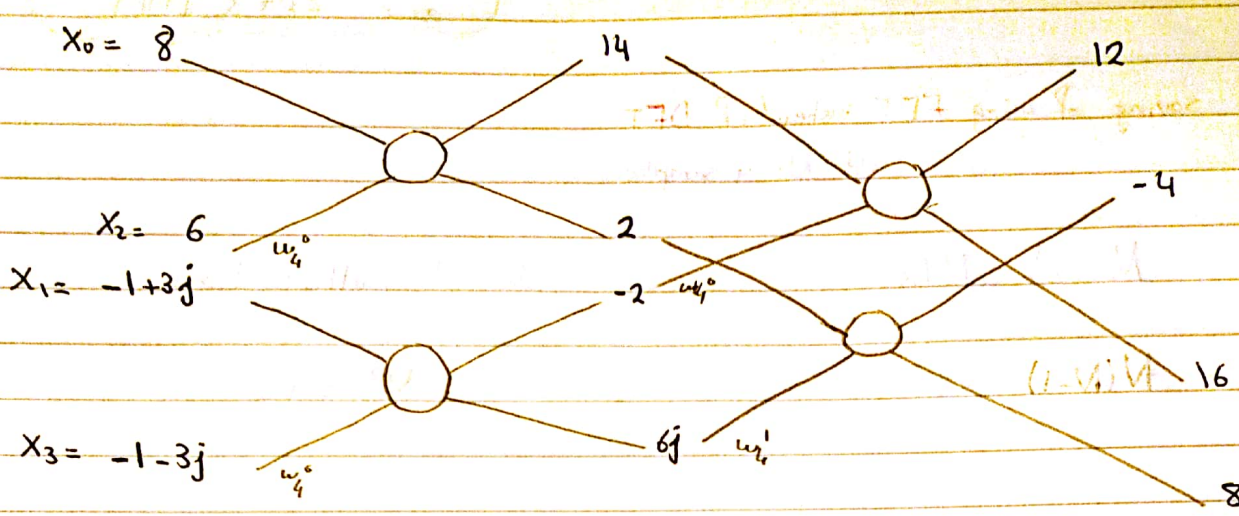
$4X_3 = y_1 - (j)\,y_3$

Scanned with CamScanner

Example:

Find the IFFT of the following sequence: $X(k) = \{8, -1+3j, 6, -1-3j\}$

Sol:



$y_0 = X(0) + X(2) = 14$

$y_1 = X(0) - X(2) = 2$

$y_2 = X(1) + X(3) = -2$

$y_3 = X(1) - X(3) = 6j$

$4x_0 = y_0 + y_2 = 12$

$4x_1 = y_1 + (j)\, y_3 = 2 + 6j^2 = -4$


$4x_2 = y_0 - y_2 = 16$

$4x_3 = y_1 - (j)\, y_3 = 2 - 6j^2 = 8$

azem el values 3la 4 3lshan yHS X(n)

$\therefore X(n) = \{3, -1, 4, 2\}$

Scanned with CamScanner



Comparison between DFT & FFT

mamken ygeb ay tarezlen
msln a3ml DFT & IFFT
aw FFT & IDFT

* Find the computational saving of using FFT instead of DFT at $N = 4$ samples

	No. of additions	No. of multiplications
DFT	$N(N-1) = 12$	$N^2 = 16$
FFT	$N \log_2(N) = 8$	$\frac{N}{2} \log_2(N) = 4$
Saving	4	12

Scanned with CamScanner

SHEET # 2

2.1 Prove that the DFT, X (k), of a sequence x (n) is periodic.

2.2 Calculate the DFT of the data sequence {0, 1, 1, 0} and check the validity of your answer by calculating its IDFT.

2.3 Use the results of prob. (2.2) to verify Parseval's theorem for the data {0,1,1,0}.

2.4 Calculate the DFT of the data sequence {0,1,1,0} using the decimation-in-time FFT algorithm. Check the answer with that of Prob. (2.2). Compare numbers of complex additions and multiplications in the two methods. Calculate the IFFT to verify your answer.

2.5 Calculate the FFT of the data sequence {0,0,1,1,1,1,0,0} and plot the amplitude and phase spectra. Check your answer by calculating the IFFT to obtain the original data sequence.

2.6 For the following signal, $X(n) = \cos(\frac{n\pi}{2})$, find the first 8-samples and then using the FFT algorithm, calculate the frequency components, X(k). Assume we use the DFT algorithm instead of the FFT algorithm, what is the computational saving.

Scanned with CamScanner

Chapter 3
correlation operation

- **Correlation operation:** it measures the degree of similarity between 2 signals.

- there are 2 types of the correlation operation:
  1. cross correlation (r_{xy}) shift left & rotate
     Measured for 2 different signals.
  2. Auto correlation (r_{xx}) shift left only
     Measured for the same signal.

← r_{xy} lw 3awza a3es signal of a person fa ha5dha w akarenha bel signalsely 3andi

← measuring a signal before & after an operation ex: radar

1] Cross correlation

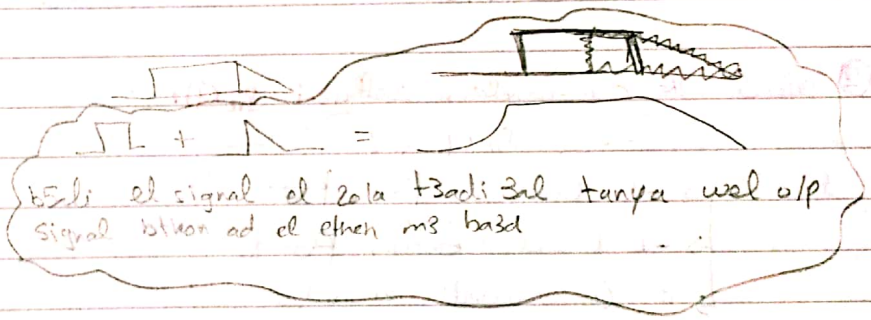
- to calculate the cross correlation between 2 sequences, r_{xy}

$$r_{xy} = \frac{1}{N_{new}} \sum_{n=0}^{N-1} x(n)\, y(n+j)$$

N_{new} ← No. of samples
j ← lag (shift) value

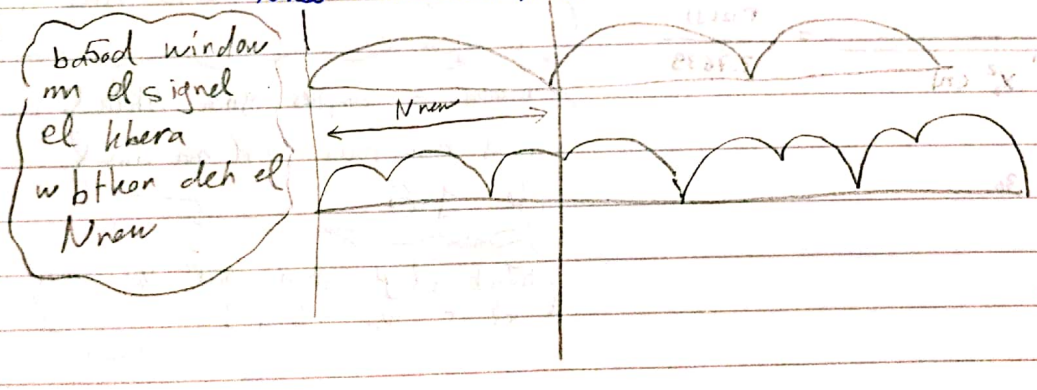
* bsabet signal w a3ml shift lel tanya 3lshan a3es correlation, fa hena bsabet el x

- types of cross correlation:
  1. linear:
     $N_{new} = N_1 + N_2 - 1$



bt5li el signal el 2ola t3adi 3al tanya wel o/p signal bt3od ad el ethen m3 ba3d

  2. Cyclic:
     $N_{new} = \max(N_1, N_2)$



ba5od window m el signal el kbera w bthon deh el Nnew

Scanned with CamScanner

*linear cross-correlation:

Ex: calculate the linear cross-correlation between the following data sequences:

$X_1 = [1, 2, -3, 4]$ & $X_2 = [3, -2, 2]$

sol.

$J = 0, 1, 2 \dots N_{new} - 1$

$\because N_1 = 4, \; N_2 = 3$

$\therefore N_{new} = N_1 + N_2 - 1 = 6$ samples

shift left & rotate

$X_1(n)$	1	2	-3	4	0	0	J	$r_{12}(j)$
	(3)	-2	2	0	0	0	0	$\frac{-7}{6} = -1.167$
	(-2)	2	0	0	0	(3)	1	$\frac{2}{6} = 0.333$
$X_2(n+j)$	2	0	0	0	3	(-2)	2	$\frac{2}{6} = 0.333$
	0	0	0	3	-2	2	3	2
	0	0	3	-2	2	0	4	-2.833
	0	3	-2	2	0	0	5	3.333

linear cross correlation = 3.333

- awl haga bgeb no. of samples (N_{new})
- b3d kda n3ml el table:
  - homa 6 samples fa bt5ot arkam N_1 fe awl row w la2 azal mn 6 arkam bkamel zeros 3lshan ykono 6 samples
  - a2ot arkam N_2 fe tani row
- J is shift value w 3lshan awl row fel table mfesh feh shift fa bt5otaha b zero
- r = bdrb awl w tani row fe bazd elements, elmost w elgy bt3 el darb w a2sem 3la 3dadhom
- bzed el new row b3ml haga4en:
  1) inc. value of J by 1
  2) shift the no. in prev. row
- fe aber ad. ba5od el value el 2la mn el row elly abl elly mt3mlsh lehom shift
- to calc. new row r, bdrb el row elly ann feh fel row bt3 $X_1(n)$ w agib r
- lama 6 samples yb2a bt2ol a3ml new rows 1 5od ma awsal le j=5
- hn5od el ρ 3lshan a3rf kol el values el r ben -1 & 1

② calculate the cross-correlation coefficient $\rho_{12}(j)$:

$-1 \leq \rho_{12}(j) \leq 1$

$\rho_{12}(j)$ →
- 1 (identical)
- -1 (identical but ~~opposite~~ antiphase)
- 0 (uncorrelated) ex: sin & cos

$$\rho_{12}(j) = \frac{r_{12}(j)}{\frac{1}{N_{new}} \sqrt{\sum_{n=0}^{N_{new}-1} x_1^2(n) \cdot \sum_{n=0}^{N_{new}-1} x_2^2(n)}} = \frac{r_{12}(j)}{3.7639}$$

$N_{new} = 6$

$\sum_{n=0}^{N_{new}-1} x_1^2(n) = (1)^2 + (2)^2 + (-3)^2 + (4)^2 = 30$

$\sum_{n=0}^{N_{new}-1} x_2^2(n) = (3)^2 + (-2)^2 + (2)^2 = 17$

Scanned with CamScanner

$X_1(n)$	1	2	-3	4	0	0	J	$r_{12}(j)$	$\rho_{12}(j)$
	3	-2	2	0	0	0	0	-1.167	-0.31
$X_2(n+j)$	-2	2	0	0	0	3	1	0.333	0.0886
	2	0	0	0	3	-2	2	0.333	0.0886
	0	0	0	3	-2	2	3	2	0.5314
	0	0	3	-2	2	0	4	-2.833	-0.7528
	0	3	-2	2	0	0	5	3.333	0.8856

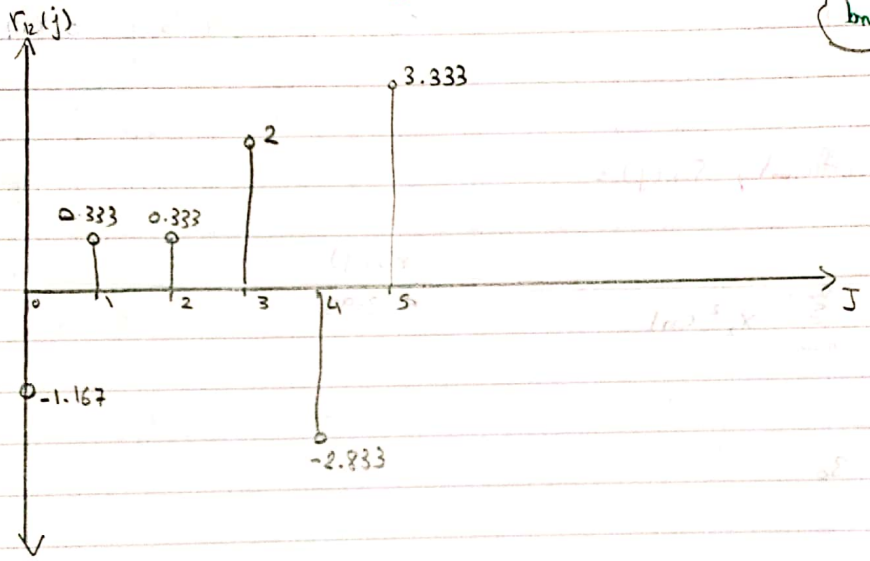
b3d m 7sbt el $\rho_{12}(j)$ 3an tbt $\frac{r_{12}(j)}{3.7639}$

3shan 7sbt table wa2sem kol value 3la 3.7639 w azawed col. 3la $\rho_{12}(j)$ w a7ot el value bta3etha

all values in $\rho_{12}(j)$ col. must be betn -1 & 1

(3) Plot the correlation function against the lag number:

bnrsm J 3l x-axis & $r_{12}(j)$ 3al y-axis



Scanned with CamScanner

★ cyclic cross-correlation

Ex: Calculate the cyclic cross-correlation between the following data sequences:

$x_1 = \{1, 2, -3, 4\}$ & $x_2 = \{3, -2, 2, -1\}$

*sol. x

$N_1 = 4$, $N_2 = 4$

$N_{new} = 4$

shift left & rotate

$J = 0, 1, 2, 3$

$x_1(n)$	1	2	-3	4	J	$r_{12}(j)$	$\rho_{12}(j)$
	(3)	-2	2	-1	0	$\frac{-11}{4} = -2.75$	-0.4734
	-1	2	-1	(3)	1	$\frac{17}{4} = 4.75$	0.7316
$x_2(n+j)$	2	-1	3	-2	2	-4.25	-0.7316
	-1	3	-2	2	3	4.75	0.8176

② calculate the cross-correlation coefficient, $\rho_{12}(j)$:

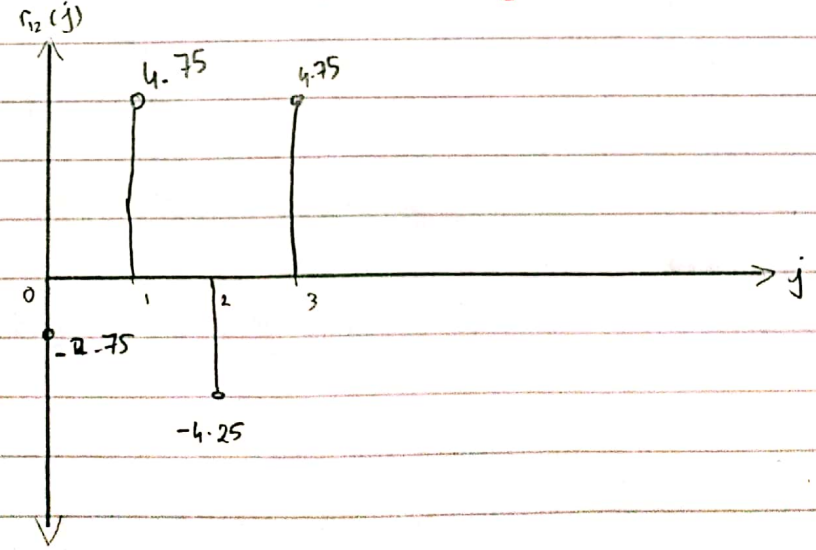
$$\rho_{12}(j) = \frac{r_{12}(j)}{\frac{1}{N_{new}} \sqrt{\sum_{n=0}^{N_{new}-1} x_1^2(n) \cdot \sum_{n=0}^{N_{new}-1} x_2^2(n)}} = \frac{r_{12}(j)}{5.8095}$$

$N_{new} = 4$

$\sum_{n=0}^{N_{new}-1} x_1^2 = (1)^2 + (2)^2 + (-3)^2 + (4)^2 = 30$

$\sum_{n=0}^{N_{new}-1} x_2^2 = (3)^2 + (-2)^2 + (2)^2 + (-1)^2 = 18$

③ plot the correlation function against the lag number:



Scanned with CamScanner

(2) Auto-correlation

Ex. Calculate the auto-correlation function, $r_{11}(j)$ for the sequence

$$X_1 = \{1, 2, -3, 4\}$$

sol.

If we have 2 sequences and 1st sequence is delayed

Let auto correlation of the same x_1

$$r_{11}(j) = \frac{1}{N_{new}} \sum x_1(n)\, x_1(n+j)$$

bec. both for same signal

$N_1 = 4$ samples $= N_{new}$

$X_1(n)$	1	2	-3	4	j	$r_{11}(j)$	$\rho_{11}(j)$
	1	2	-3	4	0	$\frac{30}{4} = 7.5$	1
$X_1(n+j)$	2	-3	4	0	1	$\frac{-16}{4} = -4$	-0.5333
	-3	4	0	0	2	1.25	1.667
	4	0	0	0	3	1	0.1333

Shift without rotation

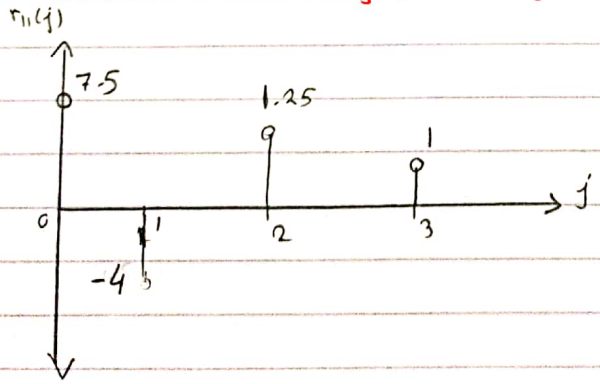
(2) Calculate the auto-correlation coefficient $\rho_{11}(j)$:

$$\rho_{11}(j) = \frac{r_{11}(j)}{\frac{1}{N_1}\sum_{n=0}^{N_{new}-1} x_1^2(n)} = \frac{r_{11}(j)}{7.5}$$

$N_1 = 4$

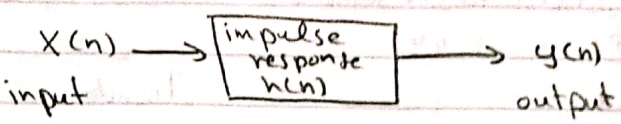
$$\sum_{n=0}^{N_{new}-1} x_1^2(n) = (1)^2 + (2)^2 + (-3)^2 + (4)^2 = 30$$

(3) plot the correlation function against the lag number:



Scanned with CamScanner

Ch3- Convolution



-Convolution describes how the input interacts with the system to produce the output

$\delta(n) \rightarrow \boxed{\quad} \rightarrow h(n)$

impulse

V.I proof

$y(0) = x(0)\,h(0)$ — (1)

$y(1) = x(0)\,h(1) + x(1)\,h(0)$ — (2)

$y(2) = x(0)\,h(2) + h(1)\,x(1) + h(0)\,x(2)$ — (3)

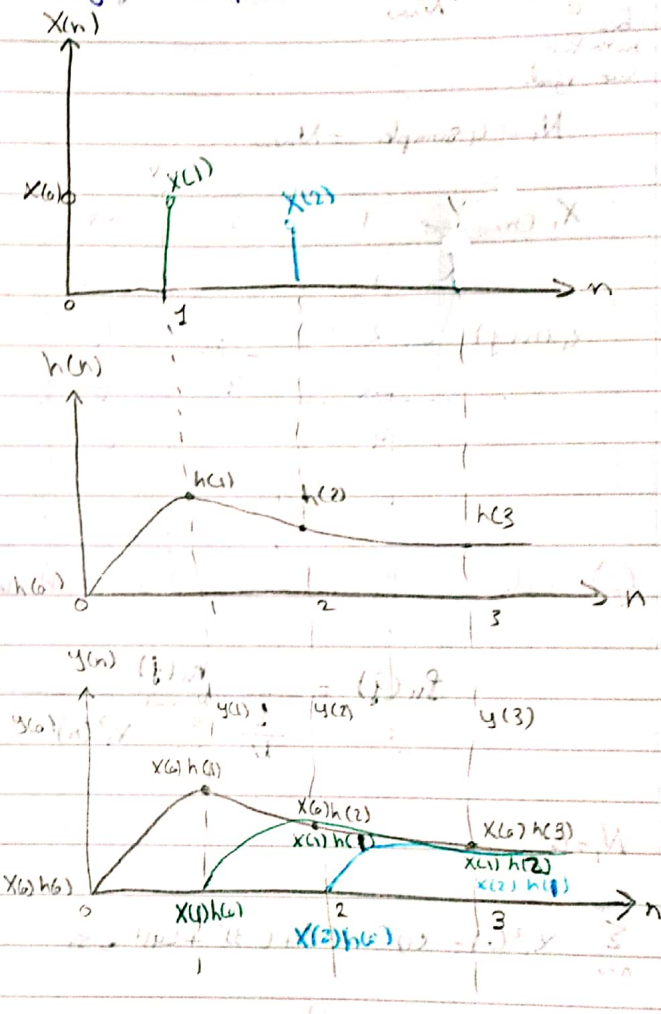
⋮

$y(n) = x(0)\,h(n) + x(1)\,h(n-1) + \cdots + x(n)\,h(0)$

$= x(n)\,h(0) + x(n-1)\,h(1) + \cdots + x(0)\,h(n)$ ✻✻

$$y(n) = \sum_{m=0}^{n} x(m)\,h(n-m) = \sum_{m=0}^{n} h(m)\,x(n-m)$$ ✻✻

inversion then shift



Scanned with CamScanner

Ex: compute the output signal when $x(n) = \{1, 0, -2, 3\}$ ($x(0)\ x(1)\ x(2)\ x(3)$) $h(n) = \{-3, 1, 4\}$ ($h(0)\ h(1)\ h(2)$)

sol.

$N_1 = 4$, $N_2 = 3$

$N_1 + N_2 - 1 = 6$

$y(0) = -3$

$y(1) = 1$

$y(2) = 10$

$y(3) =$

$y(4) =$

$y(5)$

(or) solve using table

x(m)	0	0	1	0	−2	3	n	y(n)
h(n−m)	4	1	−3	0	0	0	0	−3
	0	4	1	−3	0	0	1	1
	0	0	4	1	−3	0	2	10
	0	0	0	4	1	−3	3	−2+(−9) = −11
	0	0	0	0	4	1	4	−5
	0	0	0	0	0	4	5	3(4) = 12

x(n) inserted in 1st row

h(n) inverted then inserted to 2nd row

Scanned with CamScanner

Ex: calculate the system output when the input sequence is $x(n) = \{1, -2, 3\}$ if the system impulse response is given by $h(n) = \{-2, 2, 1, 4\}$

Sol.

$N_{new} = N_1 + N_2 - 1 = 6$

$x(m) = \{0, 0, 0, 1, -2, 3\}$

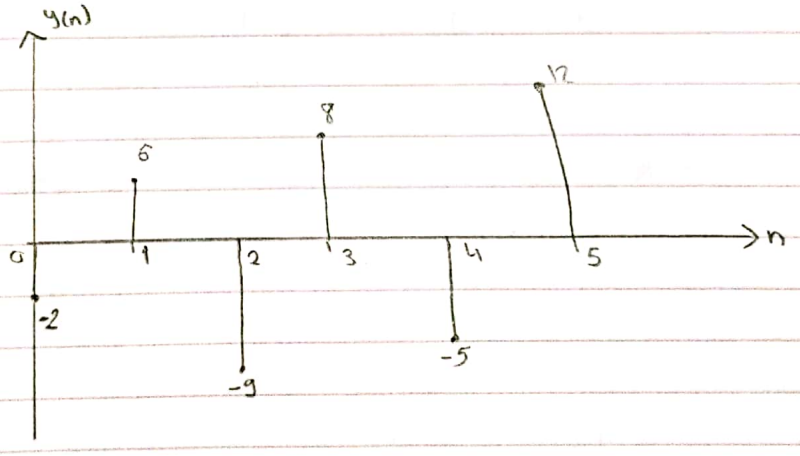
$h(-m) = \{4, 1, 2, -2, 0, 0\}$

x(m)	0	0	0	1	-2	3	n	y(n)
	4	1	2	-2	0	0	0	-2
	0	4	1	2	-2	0	1	2+4= 6
	0	0	4	1	2	-2	2	-6+1-4= -9
h(n-m)	0	0	0	4	1	2	3	8
	0	0	0	0	4	1	4	-5
	0	0	0	0	0	4	5	12

*b3ml el table =

- b7ot fe awl row x(n) b7es enhom yb2o 6 samples 12n el mdlla 6 samples
  0 0 0 1 -2 3
  el amaken el fadya fehh awl b7ot feha zeros
- b7ot fe tani row h(n) bs bb2dz el arkam mn el a5er lel awl (inverted)
  4 1 2 -2 0 0
  wel bazi zeros
- b3d kda kml shift b7ot zeros fel amaken el fadia

② draw a relation between shift value of output



Scanned with CamScanner

SHEET # 3

3.1 Describe the convolution and correlation operations.

3.2 Define the following:

(a)Cross-correlation between two sequences $x_1(n)$ and $x_2(n)$ having lengths N_1 and N_2 respectively.

(b) Correlation theorem.

(c) Correlation coefficients.

3.3 Use the correlation theorem to calculate the circular correlation of the data sequences {1,1,0,1} and {1,0,0,1}. Plot the correlation function against lag number, j.

3.4 Apply the correlation theorem to calculate the linear correlation of the data sequences {1,1,0,1} and {1,0,0,1}. Plot the correlation function against lag numbers and compare the results with the solution to prob.2.7, explain any differences.

3.5 Given the two sets of data {1.5, 2.0, 1.5, 2.0, 2.5} and {0, 0.33, 0.67, 1.0} calculate the following:

(a) Autocorrelation of the two sequences.

(b) Cross-correlation using direct method.

(c) Cross-correlation using correlation theorem.

3.6 Determine the output of an electrical system of impulse response function {0, 0.899, 0.990, 0.991, 1} when the input{ 0, 2.5, 5.0, 0 } volts is applied

(a) By direct convolution.

(b) By applying the convolution theorem.

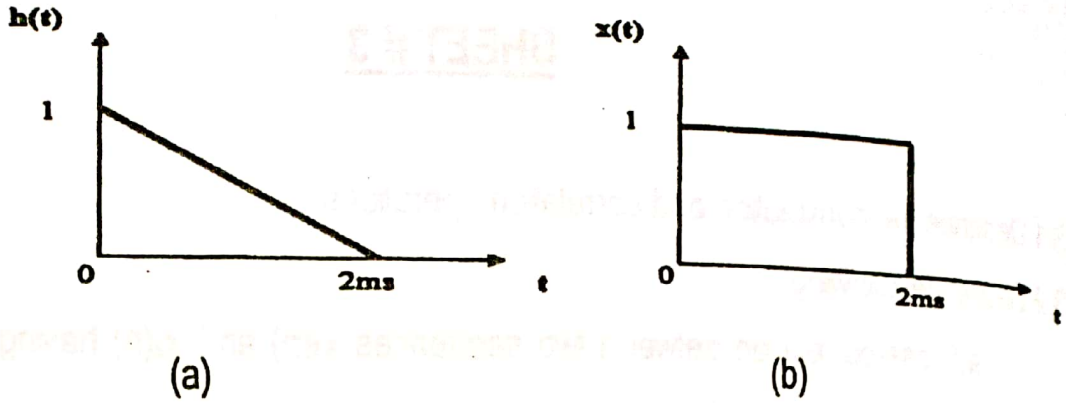
3.7 A unit amplitude pulse of width 2ms (Fig.3.15b) is applied to a circuit which has an impulse response shown in Fig.3.15a. Determine the output waveform:

(a) Analytically.

(b) By sampling h(t) every 0.25ms and representing the pulse by an impulse function located at t = 0s.

(c) Compare your results in part (a) and (b).

Scanned with CamScanner



(a) (b)

Fig. 3.15

3.8 For Prob. (3.7), find the cross-correlation between the given waveforms using direct method assume the sampling interval $T_S = 0.2\,msec$.

3.9 For the given waveform, Fig. 3.16, compute the convolution with itself y(t). Then assume the sampling interval $T_S = 0.2\ msec$ find y(n). Compare y(t) and y(n).

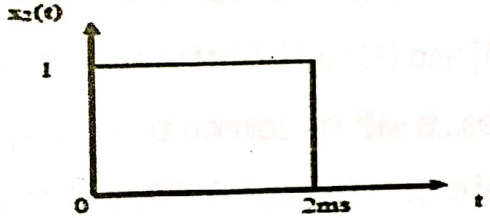


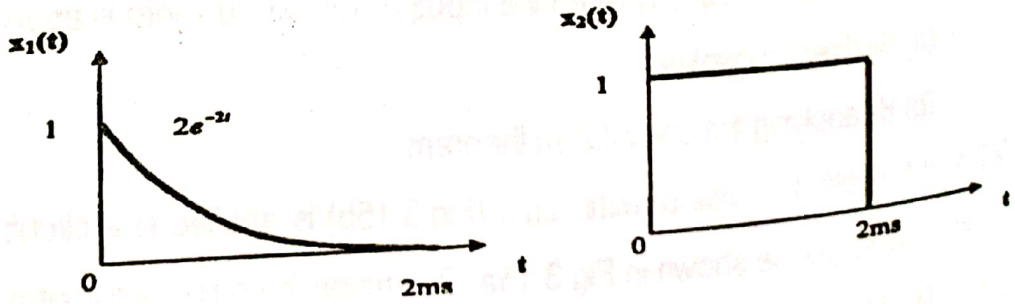
Fig. 3.16

3.10 Figure 3.17 show two functions x1(t) and x2(t). Evaluate the following:

(a) Their convolution, $x_3(t)$, numerically, taking sampled values at t = 0 , 0.5,1,1.5 and 2m

(b) x3(t) analytically.

(c) Sketch the function x3(t) and give reasons for any difference between them.



(a) (b)

Fig. 3.17

Scanned with CamScanner

Sahl aktr

CH4 - Z-transform

$$H(z) = \frac{z^2 - 2z - 8}{z^3 - z^2 - 20z} = \frac{Y(z)}{X(z)}$$

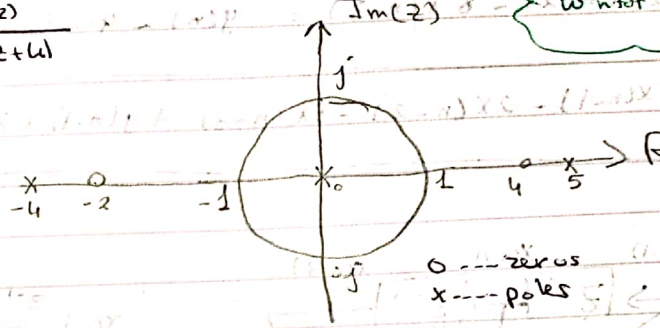
1. plot the pole-zero diagram
2. check the system stability
3. find the ROC
4. find the difference eqn ⇝ x(n) & y(n)
5. plot realization diagram

sol.

1. $H(z) = \frac{(z-4)(z+2)}{z(z^2-z-20)} = \frac{(z-4)(z+2)}{z(z-5)(z+4)}$

zeros exist at $z = 4, -2$

poles exist at $z = 0, 5, -4$



brirsm dayra with r=1 w nzbt 3leha el points

2. look at the poles:

- all poles inside (stable)
- at least 1 pole on circle (marginally stable)
- at least 1 pole outside circle (unstable)





∴ this system is unstable as there's at least 1 pole outside the unit circle

3. Region of conversion (ROC):

all values of z except at $z = \{0, 5, -4\}$ ⇝ all except poles

Scanned with CamScanner

14 $H(z) = \frac{z^2 - 2z - 8}{z^3 - z^2 - 20z} \times \frac{y(z)}{X(z)}$

$$\frac{z^2 X(z)}{z^3} - \frac{2z X(z)}{z^3} - \frac{8X(z)}{z^3} = \frac{z^3 y(z)}{z^3} - \frac{z^2 y(z)}{z^3} - \frac{20 y(z)}{z^3}$$

all powers multiply with the power of z in the numerator and denominator. Then the negative powers from the numerator are taken to the denominator and the power of z in the denominator is made positive as given in the z transform table of powers

shift (Delay) property

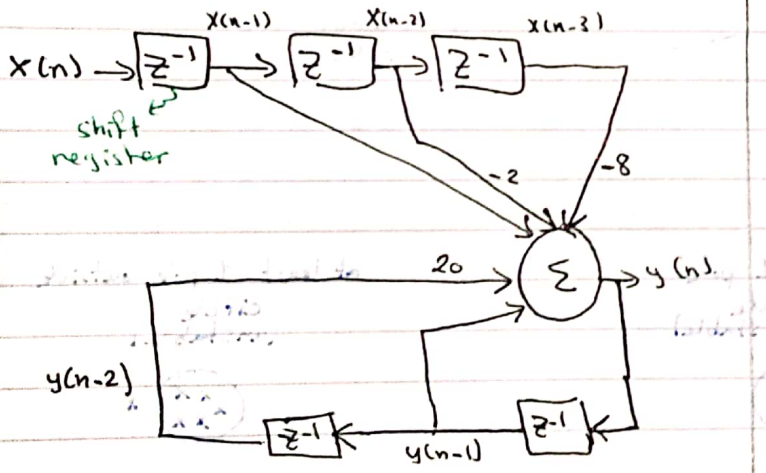
$H(z) z^{-k} \longleftrightarrow m(n-k)$

$$X(z)z^{-1} - 2X(z)z^{-2} - 8X(z)z^{-3} = y(z) - z^{-1} y(z) - 20 y\, y(z) z^{-2}$$

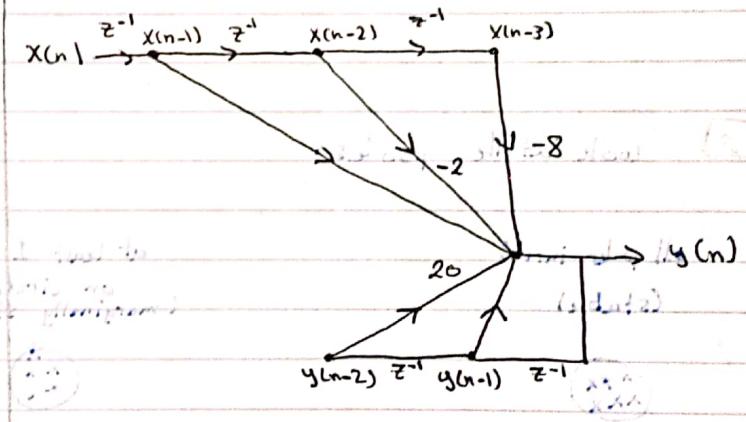
$$X(n-1) - 2X(n-2) - 8X(n-3) = y(n) - y(n-1) - 20y\,(n-2)$$

$$y(n) = x(n-1) - 2x(n-2) - 8x(n-3) + y(n-1) + 20\, y(n-2)$$

5



Realization Diagram



Signal flow graph

Scanned with CamScanner

* Ex:

$$H(z) = \frac{1-2z^{-1}-8z^{-2}}{1+3z^{-1}-10z^{-2}} = \frac{Y(z)}{X(z)}$$

1) plot the pole-zero diagram

$$H(z) = \frac{1-2z^{-1}-8z^{-2}}{1+3z^{-1}-10z^{-2}} * \frac{z^2}{z^2} = \frac{z^2-2z-8}{z^2+3z-10}$$

$$H(z) = \frac{(z-4)(z+2)}{(z+5)(z-2)}$$

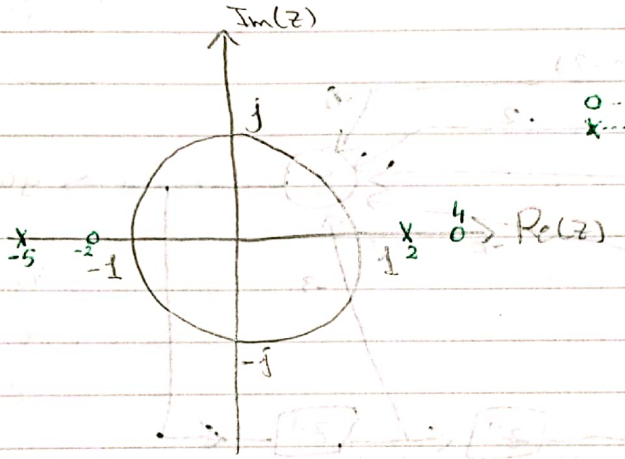
the zeros exists at $z = \{4, -2\}$

the poles exists at $z = \{-5, 2\}$

lazem el power ykon positive, fa bdrb el fraction kolo fe akbr power 3andi fe2 w taht
ex: akbr power = -2 fabdrb fe $\frac{z^2}{z^2}$

el arkam ely btsawi ele nemorator by zero yb2a esmha zeros
wel arkam ely btsawi el denomerator b zero yb2a esmha poles

simple poles
(or)
first order poles



o ... zeros
x ... poles

2) Check the system stability

the system is unstable as there's at least 1 pole outside the unit circle

3) Find the ROC

ROC (region of conversion): is all the values that make H(z) finite

∴ ROC is the entire z-plane except at $z = \{-5, 2\}$

Scanned with CamScanner

4 Find the system difference eqn. → x(n) & y(n)

it represent the relation between the system response with the input in time domain

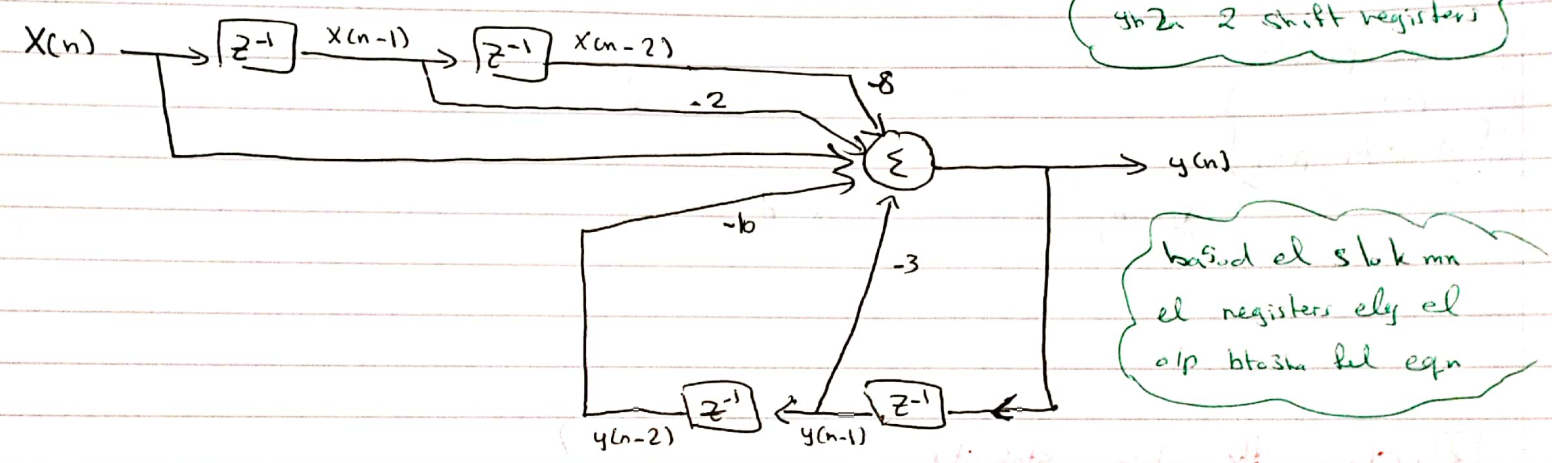
$$H(z) = \frac{1 - 2z^{-1} - 8z^{2}}{1 + 3z^{-1} - 10z^{-2}} \times \frac{Y(z)}{X(z)}$$

$$X(z) - 2X(z)z^{-1} - 8X(z)z^{-2} = Y(z) + 3Y(z)z^{-1} - 10Y(z)z^{-2}$$

$$x(n) - 2x(n-1) - 8x(n-2) = y(n) + 3y(n-1) - 10y(n-2)$$

$$y(n) = x(n) - 2x(n-1) - 8x(n-2) - 3y(n-1) + 10y(n-2)$$

5 plot the realization diagram



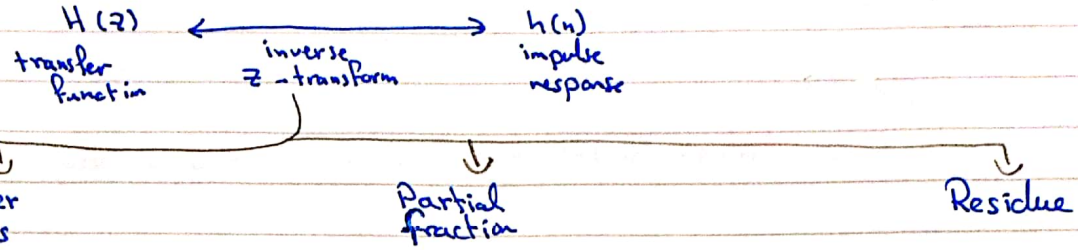
Fatama akhr value (n-2) yb2a 2 shift registers

basod el s b k mn el registers ely el o/p bto3ha lel eqn

7 Find the impulse response h(n) using the power series method

Scanned with CamScanner

Ch-4: Inverse z-transform



(7) Find the impulse response h(n) using the (power series) method:

(1) compare the transfer function by the following formula & find values of a's & b's

$$H(z) = \frac{a_0 + a_1 z^{-1} + a_2 z^{-2} + \dots}{b_0 + b_1 z^{-1} + b_2 z^{-2} + \dots} = \frac{1 - 2z^{-1} - 8z^{-2}}{1 + 3z^{-1} - 10z^{-2}}$$

~~(2) Find values~~

$\therefore$ $a_0 = 1$, $a_1 = -2$, $a_2 = -8$, $a_3 \to a_\infty = 0$

$b_0 = 1$, $b_1 = 3$, $b_2 = -10$, $b_3 \to b_\infty = 0$

① el power hta3 el eqn bel-ve fa lazem el transfer function then bel -ve
② bshof eh akbr power 3andi fo2 w ybq dah 3adad el a's, w ashof akbr power taht w ybq dah 3adad el b's
③ any coeff. msh fel powers bstbro zero

(2) substitute in the following eqn. to get h(n):

$$h(n) = \frac{[a_n - \sum_{i=1}^{n} h(n-i)\, b_i]}{b_0}$$

$h(0) = a_0 / b_0 = 1$

$h(1) = [a_1 - h(0) b_1] / b_0 = [-2 - 1 * 3] / 1 = -5$

$h(2) = [a_2 - h(1) b_1 - h(0) b_2] / b_0 = [-8 - (-5 * 3) - (1 * -10)] / 1 = 17$

$h(3) = [a_3 - h(2) b_1 - h(1) b_2 - h(0) b_3] / b_0 = [0 - (17 * 3) - (-5 * -10) - 0] / 1 = -101$

$h(4) = [a_4 - h(3) b_1 - h(2) b_2 - h(1) b_3 - h(0) b_4] / b_0$

howa by 7aded no. of samples

Scanned with CamScanner

Ex: Find the impulse response h(n) using power series method:

$$H(z) = \frac{z^2 - 2z - 8}{z^3 - z^2 - 2z}$$

① $$\frac{z^2 - 2z - 8}{z^3 - z^2 - 2z} * \frac{z^{-3}}{z^{-3}} = \frac{z^{-1} - 2z^{-2} - 8z^{-3}}{1 - z^{-1} - 2z^{-2}}$$

$\therefore a_0 = 0,\ a_1 = 1,\ a_2 = -2,\ a_3 = -8,\ a_4 \to a_\infty = 0$

$b_0 = 1,\ b_1 = -1,\ b_2 = -2,\ b_3 \to b_\infty = 0$

② $$h(n) = \left[a_n - \sum_{i=1}^{n} h(n-i)\, b_i\right] / b_0$$

h ↓ & n ↑

$h(0) = a_0 / b_0 = 0$

$h(1) = [a_1 - h(0) b_1] / b_0 = 1$

$h(2) = [a_2 - h(1) b_1 - h(0) b_2] / b_0 = -1$

$h(3) = [a_3 - h(2) b_1 - h(1) b_2 - h(0) b_3] / b_0 = 13$

$h(4) = [a_4 - h(3) b_1 - h(2) b_2 - h(1) b_3 - h(0) b_4] / b_0 = __$

Scanned with CamScanner

Table 4.1 z-transforms of some common sequences.

Entry number	Discrete-time sequence $x(n)$, $n \geq 0$	z-transform $X(z)$	Region of convergence of $X(z)$
1	$k\delta(n)$	k	Everywhere
2	K	$\frac{kz}{z-1}$	$\|z\| > 1$
3	kn	$\frac{kz}{(z-1)^2}$	$\|z\| > 1$
4	kn^2	$\frac{kz(z+1)}{(z-1)^3}$	$\|z\| > 1$
5	$Ke^{-\alpha n}$	$\frac{kz}{z-e^{-\alpha}}$	$\|z\| > e^{-\alpha}$
6	$Kne^{-\alpha n}$	$\frac{kze^{-\alpha}}{(z-e^{-\alpha})^2}$	$\|z\| > e^{-\alpha}$
7	$1-e^{-\alpha n}$	$\frac{z(1-e^{-\alpha})}{z^2-z(1+e^{-\alpha})+e^{-\alpha}}$	$\|z\| > e^{-\alpha}$
8	$\cos(\alpha n)$	$\frac{z(z-\cos\alpha)}{z^2-2z\cos\alpha+1}$	$\|z\| > 1$
9	$\sin(\alpha n)$	$\frac{z\sin\alpha}{z^2-2z\cos\alpha+1}$	$\|z\| > 1$
10	$E^{-\alpha n}\sin(\alpha n)$	$\frac{ze^{-\alpha}\sin\alpha}{z^2-2e^{-\alpha}z\cos\alpha+e^{-2\alpha}}$	$\|z\| > e^{-\alpha}$
11	$e^{-\alpha n}\cos(\alpha n)$	$\frac{ze^{-\alpha}(ze^{\alpha}-\cos\alpha)}{z^2-2ze^{-\alpha}\cos\alpha+e^{-2\alpha}}$	$\|z\| > e^{-\alpha}$
12	$\cosh(\alpha n)$	$\frac{z^2-z\cosh\alpha}{z^2-2z\cosh\alpha+1}$	$\|z\| > \cosh\alpha$
13	$\sinh(\alpha n)$	$\frac{z\sinh\alpha}{z^2-2z\cosh\alpha+1}$	$\|z\| > \sinh\alpha$
14	$k\alpha^n$	$\frac{kz}{z-\alpha}$	$\|z\| > \alpha$
15	$kn\alpha^n$	$\frac{k\alpha z}{(z-\alpha)^2}$	$\|z\| > \alpha$
16	$2\|c\|\,\|p\|^n\cos(n\angle p+\angle c)$	$\frac{cz}{z-p}+\frac{c^*z}{z-p^*}$	

k and α are constants; c is a complex number.

Scanned with CamScanner

* Find the impulse response h(n) using the partial fraction method:

Fel emtHan bystaded 3aiz z anhi method

$$H(z) = \frac{z^2 - 2z - 8}{z^2 - 3z - 10}$$

① Divide both sides by z:

$$\frac{H(z)}{z} = \frac{z^2 - 2z - 8}{z(z^2 - 3z - 10)} = \frac{z^2 - 2z - 8}{z(z+5)(z-2)}$$

mode → eqn → 1

② Find the fractions of signal by:

$$\frac{H(z)}{z} = \frac{A}{z} + \frac{B}{(z+5)} + \frac{C}{(z-2)}$$

③ get values of A, B, C

$$A = \left.\frac{z^2 - 2z - 8}{(z+5)(z-2)}\right|_{z=0} = 4/5$$

table at p.114

3lshan ageb A, basabeha w a7sb el ba2i

$$B = \left.\frac{z^2 - 2z - 8}{z(z-2)}\right|_{z=-5} = 27/35$$

given table

h(n)	H(z)
$k\delta(n)$	k
$k(\alpha)^n$	$\frac{kz}{(z-\alpha)}$
$kn\alpha^n$	$\frac{k\alpha z}{(z-\alpha)^2}$

$$C = \left.\frac{z^2 - 2z - 8}{z(z+5)}\right|_{z=2} = -4/7$$

$\delta(0) = 1$

$\delta(n \neq 0) = 0$

$$H(z) = \frac{4}{5} + \frac{(27/35)z}{(z+5)} + \frac{(-4/7)z}{(z-2)}$$

From table ↴

$$h(n) = \frac{4}{5}\delta(n) + \frac{27}{35}(-5)^n - \frac{4}{7}(2)^n$$

$n = 0, 1, 2, 3$ (4 samples)

$h(0) = 1$

$h(1) = -5$

$h(2) = 17$

$h(3) = -101$

Scanned with CamScanner

- Find $h(n)$ by applying an impulse:

$y(n) = x(n) - 2x(n-1) - 8x(n-2) - 3y(n-1) + 10y(n-2)$ ← difference eqn. of system

$x(n) = \delta(n)$ → [system] → $y(n) = h(n)$

① replace each $x(n)$ by $\delta(n)$

$h(n) = \delta(n) - 2\delta(n-1) - 8\delta(n-2) - 3h(n-1) + 10h(n-2)$

$h(0) = \delta(0) - 2\delta(-1) - 8\delta(-2) - 3h(-1) + 10h(-2) = 1$

($\delta(-1)=0$, $\delta(-2)=0$, $h(-1)=0$, $h(-2)=0$)

$\delta(0) = 1$

$\delta(n \neq 0) = 0$

$h(1) = \delta(1) - 2\delta(0) - 8\delta(-1) - 3h(0) + 10h(-1) = -5$

($\delta(1)=0$, $\delta(-1)=0$, $h(-1)=0$)

$h(2) = \delta(2) - 2\delta(1) - 8\delta(0) - 3h(1) + 10h(0) = 17$

($\delta(2)=0$, $\delta(1)=0$)

$h(3) = \delta(3) - 2\delta(2) - 8\delta(1) - 3h(2) + 10h(1) = -101$

Scanned with CamScanner

- higher order poles:

Ex: $H(z) = \frac{(z+1)}{(z-0.5)(z-1)^2}$

$$\frac{H(z)}{z} = \frac{(z+1)}{(z)(z-0.5)(z-1)^2}$$

$H(z)$ has 1st order pole at $z = \{0, 0.5\}$ & 2nd order pole at $z=1$

$$\therefore \frac{H(z)}{z} = \frac{A}{z} + \frac{B}{z-0.5} + \frac{C_2}{(z-1)^2} + \frac{C_1}{(z-1)}$$

kw kanet $(z-1)^3$ kont hazawed $\frac{C_3}{(z-1)^3}$

$$A = \left.\frac{(z+1)}{(z-0.5)(z-1)^2}\right|_{z=0} = -2$$

$$B = \left.\frac{(z+1)}{z(z-1)^2}\right|_{z=0.5} = 12$$

$$C_2 = \left.\frac{(z+1)}{z(z-0.5)}\right|_{z=1} = 4$$

~~Then~~ $C_1 = \frac{d}{dz}(C_2)$

$\frac{d}{dz}\frac{N}{D} = \frac{DN' - ND'}{D^2}$

$$C_1 = \frac{d}{dz}\left(\frac{z+1}{z(z-0.5)}\right)\Bigg|_{z=1} = \left.\frac{(z^2-0.5z) - (2z-0.5)(z+1)}{(z^2-0.5z)^2}\right|_{z=1} = -10$$

$$H(z) = -2 + \underbrace{\frac{12z}{z-0.5}}_{\text{by}} + \underbrace{\frac{4z}{(z-1)^2}}_{\text{from table}} + \frac{-10z}{(z-1)}$$

$$h(n) = -2\delta(n) + 12(0.5)^n + 4n - 10, \quad n = 0, 1, 2, 3, 4$$

$h(0) =$

$h(1) =$

$h(2) =$

$h(3) =$

Scanned with CamScanner

* Ex: $H(z) = \frac{z^2 - 2z - 8}{z(z^2 - z - 20)}$ (higher order poles)

$$\frac{H(z)}{z} = \frac{z^2 - 2z - 8}{z^2(z^2 - z - 20)} = \frac{z^2 - 2z - 8}{z^2(z-5)(z+4)}$$

$$\frac{H(z)}{z} = \frac{A_2}{z^2} + \frac{A_1}{z} + \frac{B}{z-5} + \frac{C}{z+4}$$

Bishan 3andna z^2 fa bn3ml 2 terms: $\frac{A_1}{z}$, $\frac{A_2}{z^2}$

$$A_2 = \left.\frac{z^2 - 2z - 8}{(z-5)(z+4)}\right|_{z=0} = \frac{2}{5}$$

$$A_1 = \left.\frac{d}{dz}\left(\frac{z^2 - 2z - 8}{z^2 - z - 20}\right)\right|_{z=0} = \left.\frac{(2z-2)(z^2-z-20) - (2z-1)(z^2-2z-8)}{(z^2 - z - 20)^2}\right|_{z=0} = \frac{2}{25}$$

$$B = \left.\frac{z^2 - 2z - 8}{z^2(z+4)}\right|_{z=5} = \frac{7}{225}$$

$$C = \left.\frac{z^2 - 2z - 8}{z^2(z-5)}\right|_{z=-4} = \frac{-1}{9}$$

$$\frac{H(z)}{z} = \frac{2/5}{z^2} + \frac{2/25}{z} + \frac{7/225}{z-5} + \frac{(-1/9)}{z+4} \quad \left(* \frac{z}{z}\right)$$

$$H(z) = \frac{2/5}{z} + \frac{2}{25} + \frac{(7/225)z}{z-5} + \frac{(-1/9)z}{z+4}$$

$$h(n) = \square + \frac{2}{25}\delta(n) + \frac{7}{225}(5)^n + \left(\frac{-1}{9}\right)(-4)^n$$

$$h(0) = \square + \frac{2}{25} + \frac{7}{225} + (-1/9) = \text{——}$$

$$h(1) = \square + \frac{7}{225}(5) + \frac{4}{9} = \text{——}$$

Scanned with CamScanner

* Ex: $H(z) = \frac{z^2 - 2z - 8}{z(z-5)^2(z+4)}$ (Higher order poles)

$$\frac{H(z)}{z} = \frac{z^2 - 2z - 8}{z(z-5)^2(z+4)}$$

$$= \frac{A}{z} + \frac{B_2}{(z-5)^2} + \frac{B_1}{(z-5)} + \frac{C}{z+4}$$

$$A\Big|_{z=0} = \frac{-8}{100} = \frac{-2}{25}$$

$$B_2 = \left.\frac{z^2 - 2z - 8}{z(z+4)}\right|_{z=5} = \frac{7}{45}$$

$$B_1 = \left.\frac{d}{dz}\left(\frac{z^2-2z-8}{z(z+4)}\right)\right|_{z=5} = \left.\frac{d}{dz}\left(\frac{z^2-2z-8}{z^2+4z}\right)\right|_{z=5} = \left.\frac{(2z-2)(z^2+4z) - (2z+4)(z^2-2z-8)}{(z^2+4z)^2}\right|_{z=5}$$

$$C = \left.\frac{z^2-2z-8}{z(z-5)^2}\right|_{z=-4} = \frac{4}{81}$$

$$H(z) = \frac{-2}{25} + \frac{(7/45)z}{(z-5)^2} + \frac{z}{z-5} + \frac{(4/81)z}{(z+4)}$$

$$h(n) = \frac{-2}{25}\delta(n) + \left(\frac{7}{225}\right)n(5)^n + (5)^n + \frac{4}{81}(-4)^n$$

$k\alpha = \frac{7}{45}$, $\alpha = 5$

$\therefore k = \frac{7}{225}$

bn7el kol masa2la mara bel partial fraction w mara b power series w lazem t13 nafs el answer

Scanned with CamScanner

SHEET # 4

4.1 Define the following items: Time invariant discrete – time system, Linear discrete – time system, and causal signal.

4.2 Find and plot the z-transform of the following discrete-time sequences:

(a) $x(n)=\{0,1,3,5,3,1,0\}$

(b) $x(-3)=0$, $x(-2)=1$, $x(-1)=3$, $x(0)=5$, $x(1)=3$, $x(2)=1$ & $x(3)=0$.

4.3 Find and plot the z-transform of each of the following discrete-time sequences:

(a) $x(n) = \sin(n T)$, $n=0,1,\ldots$

(b) $x(n) = a^n$, $n > 0$

$= 0$ $n < 0$

4.4 An exponential sequence is defined as

$$x(n) = e^{-kn}, \quad n \geq 0$$

Find and plot its z-transform, including the constraint on the z-transform to converge, for: (a) k is real. (b) k is complex.

4.5 Find, using the power series method the first five values of causal discrete-time sequence corresponding to each of the following z-transform:

(a) $X(z) = (z - 1)/(z - 0.7071)^2$

(b) $X(z) = 1/(z - 0.5)(z + 0.9)^3$

4.6 Repeat problem (5) using the partial fraction expansion method.

4.7 Repeat problem (5) using the residue method.

4.8 Given the difference equation

$$y(n) + B_1 y(n-1) + B_2 y(n-2) = A$$

where A, B_1 and B_2 are arbitrary constants, find an expression for z-transform, Y(z). Use an appropriate inverse z-transform technique to obtain a closed form for y(n).

Scanned with CamScanner

4.9 For the discrete-time system shown in Fig.4.13, obtain the difference equation, and then derive the system transfer function H (z).

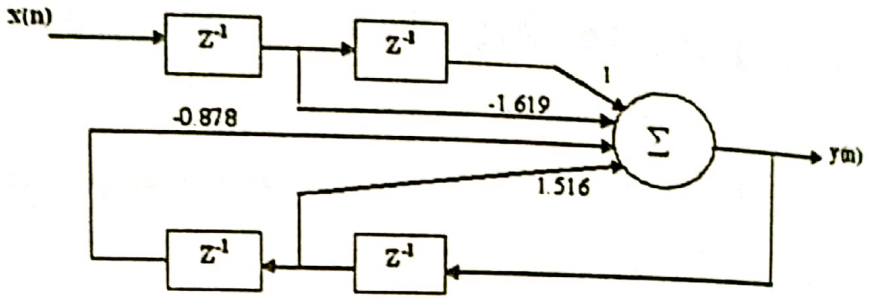


Fig.4.13

4.10 The transfer function of a discrete-time system has poles at z=0.5, z=0.1±j0.02 and a third-order zero at z=-1 and z=1.

(a) Sketch the pole-zero diagram for the system.

(b) Derive the system transfer function, H (z), from the pole-zero diagram.

(c) Develop the difference equation.

(d) Draw the realization diagram in signal flowgraph form.

4.11 The signal flowgraph of a discrete-time system is shown in Fig. 4.14 Find the two-step difference equation relating the output, y (n), and input, x (n). Derive the transfer function, H (z), from the difference equation.

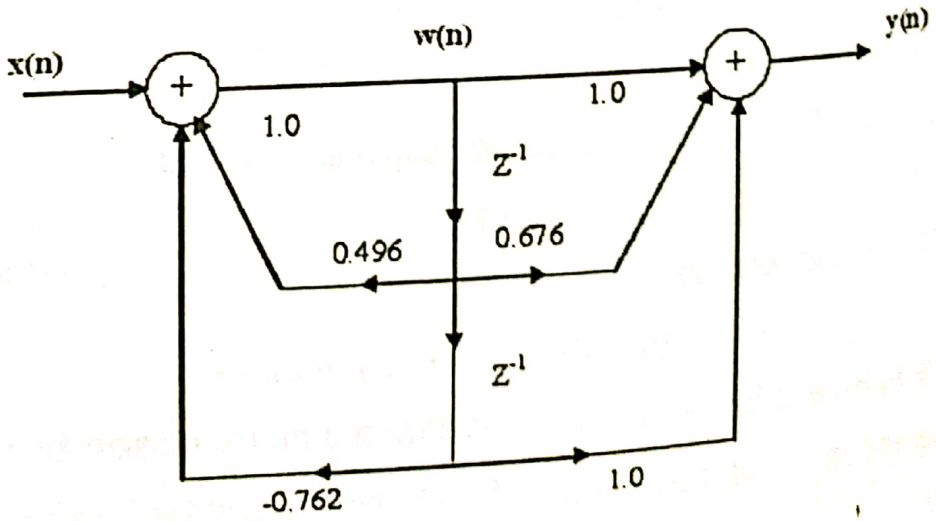


Fig.4.14

Scanned with CamScanner